Started on	Wednesday, 15 April 2026, 11:21 AM
State	Finished
Completed on	Wednesday, 15 April 2026, 11:27 AM
Time taken	5 mins 13 secs
Marks	5.00/10.00
Grade	**50.00** out of 100.00

Question 1

Correct

Mark 1.00 out of 1.00

What is required for anti/De-icing Vehicle? (防/除冰车需要什么？)

Select one:

- a. When the De/Anti-icing equipment is used on the ramp, the equipment shall have a storage tank for the de/anti-icing fluid.(当在坡道上使用除冰/防冰设备时，设备应有一个用于除冰/防冰液的储罐)
- b. The vehicle also needs labeling at all appropriate areas, such as hoses, fluids, filling ports, instructional plates etc. (车辆还需要在所有适当区域贴上标签，例如软管、流体、加油口、指示牌等)
- c. A two-way communication needs to be established between the vehicle and the aircraft (or the coordinator). This communication needs to be performed via VHF- radio (需要在车辆和飞行器（或协调器）之间建立双向通信。这种通信需要通过 VHF 无线电进行)
- d. All of them (所有这些) ✔

The correct answer is: All of them (所有这些)

Question 2

Correct

Mark 1.00 out of 1.00

When the aeroplane is to be treated during de-icing/anti-icing with the flight crew on board, what should the flight and ground crews confirm: （如果飞机进行除防冰时，飞机机组在飞机上，机组和地面人员需要确认的是什么）

Select one:

- a. The fluid to be used, the extent of treatment required, and any aeroplane type specific procedure(s) to be used. （使用的除防液，规定的服务范围，以及不同飞机不同的程序） ✔
- b. The name of the Contracted Ground Handling Company. （地面服务公司的名字）
- c. The outside temperature （机舱外温度）
- d. The number of ground crews （乘务组人数）

The correct answer is: The fluid to be used, the extent of treatment required, and any aeroplane type specific procedure(s) to be used. （使用的除防液，规定的服务范围，以及不同飞机不同的程序）

Question 3

Incorrect

Mark 0.00 out of 1.00

What statement is not correct about Holdover Time of VJC policy? (关于 VJC 保单的 Holdover Time 说法不正确的是?)

Select one:

- a. Holdover time is obtained by anti-icing fluids remaining on the aircraft surfaces. (保持时间是通过飞机表面残留的防冰液获得的)
- b. Holdover time will have effectively run out when frozen deposits start to form/accumulate on treated aircraft surfaces (当冻结的沉积物开始在处理过的飞机表面上形成/积累时，保持时间实际上已经用完)
- c. VietJet Air will update EASA handover time table annually in the end of August. (越捷航空将在每年八月底更新 EASA 交接时间表)
- d. Type I fluids form a thin liquid wetting film, which provides limited holdover time, especially in conditions of freezing precipitation. With this type of fluid no additional holdover time would be provided by increasing the concentration of the fluid in the fluid/water mix. (I 型流体形成薄的液体润湿膜，提供有限的保持时间，特别是在冻结沉淀的条件下。对于这种类型的流体，不会通过增加流体/水混合物中流体的浓度来提供额外的保持时间) ✖

The correct answer is: VietJet Air will update EASA handover time table annually in the end of August. (越捷航空将在每年八月底更新 EASA 交接时间表)

Question 4

Incorrect

Mark 0.00 out of 1.00

Please choose the correct answer (a, b, c, or d.) to the relative pictures?（请选出正确的对应图片的选项）

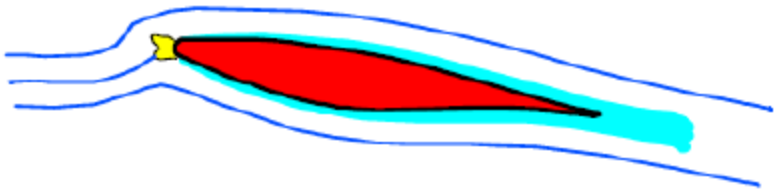

Select one:

- a.
  Clean wing with normal boundary layer.（有正常边界层的干净的机翼）
- b.
  Iced wing in configuration zero. The ice accretion on the leading edge is bigger than scale. Aircraft is certified in those conditions because the aerodynamic “circulation” around the full wing is not severely affected and Lift is not highly affected.（零配置机翼结冰状态。机翼前缘堆积的冰超出比例。在此状态下的飞机，按照动力学计算，飞机的机翼严重受影响，飞机的平飞状态严重受影响）
- c.
  Iced wing at landing conditions. Aircraft is certified to land in those conditions because slat slot restores a “normal” boundary layer and the “circulation” around the full wing is not severely affected （落地时飞机机翼结冰的状态。在此状态下的飞机可以正常落地，因为飞机机翼间的夹缝有正常的边界层，对飞机的机翼没有太大影响） ✖
- d.
  Morning frost after overnight stay in clear sky condition. Even a very thin layer of velvet ice will significantly degrade the boundary layer. Lift loss may be large. Aircraft is NOT certified to take-off in those conditions.（天气晴朗的情况下，飞机过夜机翼结冰状态。虽然堆积量很小，但明显降低飞机边界层。飞机升力的损失也许很大。飞机在此状态不能安全起飞）

The correct answer is:
Iced wing in configuration zero. The ice accretion on the leading edge is bigger than scale. Aircraft is certified in those conditions because the aerodynamic “circulation” around the full wing is not severely affected and Lift is not highly affected.（零配置机翼结冰状态。机翼前缘堆积的冰超出比例。在此状态下的飞机，按照动力学计算，飞机的机翼严重受影响，飞机的平飞状态严重受影响）

Question 5

Correct

Mark 1.00 out of 1.00

Who shall record the correct type and quatity of fluid used after the anti-icing/deicing is performed?（谁来记录除防冰的流程是否正确，以及除防冰后飞机的状态）

Select one:

- a. The Contracted Ground Handling Company.（签约的地面服务公司）
- b. The qualified mechanic（合格的技术员工）
- c. The pilot in command.（指定的机长）✔
- d. Any pilot（任何一个机长）

The correct answer is: The pilot in command.（指定的机长）

Question 6

Incorrect

Mark 0.00 out of 1.00

During the communication terminology for de-icing/anti-icing, with whom shall the PIC communicate?（在进行除防冰专业问题上，应该和谁进行沟通）

Select one:

- a. The De-icing/anti-icing supervisor.（除防冰部门领导）
- b. The qualified mechanic. （合格的技术员工）✖
- c. ATC
- d. Any staffs on ground.（任何一个地服员工）

The correct answer is: The De-icing/anti-icing supervisor.（除防冰部门领导）

Question 7

Incorrect

Mark 0.00 out of 1.00

Please choose the correct answer (a, b, c, or d.) to the relative pictures?（请选出正确的对应图片的选项）

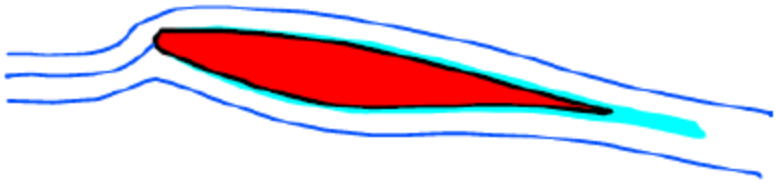

Select one:

- a. Clean wing with normal boundary layer.（有正常边界层的干净的机翼）
- b. Iced wing in configuration zero. The ice accretion on the leading edge is bigger than scale. Aircraft is certified in those conditions because the aerodynamic “circulation” around the full wing is not severely affected and Lift is not highly affected.（零配置机翼结冰状态。机翼前缘堆积的冰超出比例。在此状态下的飞机，按照动力学计算，飞机的机翼严重受影响，飞机的平飞状态严重受影响） ✖
- c. Iced wing at landing conditions. Aircraft is certified to land in those conditions because slat slot restores a “normal” boundary layer and the “circulation” around the full wing is not severely affected（落地时飞机机翼结冰的状态。在此状态下的飞机可以正常落地，因为飞机机翼间的夹缝有正常的边界层，对飞机的机翼没有太大影响）
- d. Morning frost after overnight stay in clear sky condition. Even a very thin layer of velvet ice will significantly degrade the boundary layer. Lift loss may be large. Aircraft is NOT certified to take-off in those conditions.（天气晴朗的情况下，飞机过夜机翼结冰状态。虽然堆积量很小，但明显降低飞机边界层。飞机升力的损失也许很大。飞机在此状态不能安全起飞）

The correct answer is: Clean wing with normal boundary layer.（有正常边界层的干净的机翼）

Question 8

Incorrect

Mark 0.00 out of 1.00

Please choose the correct answer (a, b, c, or d.) to the relative pictures?（请选出正确的对应图片的选项）

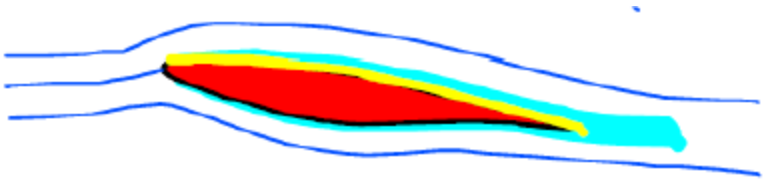

Select one:

- a. Clean wing with normal boundary layer.（有正常边界层的干净的机翼）
- b. Iced wing in configuration zero. The ice accretion on the leading edge is bigger than scale. Aircraft is certified in those conditions because the aerodynamic “circulation” around the full wing is not severely affected and Lift is not highly affected.（零配置机翼结冰状态。机翼前缘堆积的冰超出比例。在此状态下的飞机，按照动力学计算，飞机的机翼严重受影响，飞机的平飞状态严重受影响）
- c. Iced wing at landing conditions. Aircraft is certified to land in those conditions because slat slot restores a “normal” boundary layer and the “circulation” around the full wing is not severely affected（落地时飞机机翼结冰的状态。在此状态下的飞机可以正常落地，因为飞机机翼间的夹缝有正常的边界层，对飞机的机翼没有太大影响） ✖
- d. Morning frost after overnight stay in clear sky condition. Even a very thin layer of velvet ice will significantly degrade the boundary layer. Lift loss may be large. Aircraft is NOT certified to take-off in those conditions.（天气晴朗的情况下，飞机过夜机翼结冰状态。虽然堆积量很小，但明显降低飞机边界层。飞机升力的损失也许很大。飞机在此状态不能安全起飞）

The correct answer is: Morning frost after overnight stay in clear sky condition. Even a very thin layer of velvet ice will significantly degrade the boundary layer. Lift loss may be large. Aircraft is NOT certified to take-off in those conditions.（天气晴朗的情况下，飞机过夜机翼结冰状态。虽然堆积量很小，但明显降低飞机边界层。飞机升力的损失也许很大。飞机在此状态不能安全起飞）

Question 9

Correct

Mark 1.00 out of 1.00

What are the basic hazards created by ice or frost build-up on the aircraft?（飞机结冰或者被雪覆盖会造成什么样的基本危害）

Select one:

- a. To decrease the amount of lift（减少飞机的举升量）
- b. To cause unbalancing of the aircraft, making it hard to control（造成飞机失去平衡，难以控制）
- c. Both of a. and b.（a和b） ✔
- d. None of them（一个都不对）

The correct answer is: Both of a. and b.（a和b）

Question 10

Correct

Mark 1.00 out of 1.00

During low temperature conditions, who is authorised to perform ice-check immediately before the aircraft departure?（在低温情况下，飞机起飞前有谁来负责检查飞机结冰情况）

Select one:

- a. The authorised maintenance staff （授权的机务人员）
- b. The pilot （机长）
- c. The ground staff（地面工作人员）
- d. Both a. and b.（a和b） ✔

The correct answer is: Both a. and b.（a和b）

Finish review